**REVISION: UNIT 1: NUMBERS TO 100 (Pg 12 – 26)**

***Note to parents / guardians.***

- *Revise the unit with your child.*
- *Please do not teach, allow your child to practice what they already know. Only correct them when necessary.*
- *If there is anything your child is challenged with, please feel free to send me a personal WhatsApp message.*

**1) Numbers to 100 (Revise Pg 12 - 18)**

**<u>100 Square</u>**

- Practice counting from 1 to 100.
- Identify rows and columns and practice writing the words “row” and “column”

| | | | | | | | | | |
|---|---|---|---|---|---|---|---|---|---|
| 1 | 2 | 3 | 4 | 5 | 6 | 7 | 8 | 9 | 10 |
| 11 | 12 | 13 | 14 | 15 | 16 | 17 | 18 | 19 | 20 |
| 21 | 22 | 23 | 24 | 25 | 26 | 27 | 28 | 29 | 30 |
| 31 | 32 | 33 | 34 | 35 | 36 | 37 | 38 | 39 | 40 |
| 41 | 42 | 43 | 44 | 45 | 46 | 47 | 48 | 49 | 50 |
| 51 | 52 | 53 | 54 | 55 | 56 | 57 | 58 | 59 | 60 |
| 61 | 62 | 63 | 64 | 65 | 66 | 67 | 68 | 69 | 70 |
| 71 | 72 | 73 | 74 | 75 | 76 | 77 | 78 | 79 | 80 |
| 81 | 82 | 83 | 84 | 85 | 86 | 87 | 88 | 89 | 90 |
| 91 | 92 | 93 | 94 | 95 | 96 | 97 | 98 | 99 | 100 |

**Missing numbers (Pg 13 - 15)**

- Practice writing missing numbers using the 100 squares.

| | | | | | | | | | |
|---|---|---|---|---|---|---|---|---|---|
| 31 | | | | 35 | | | | | 40 |
| 61 | 62 | | | 65 | | | | | |
| | | | | 95 | | | | | 100 |

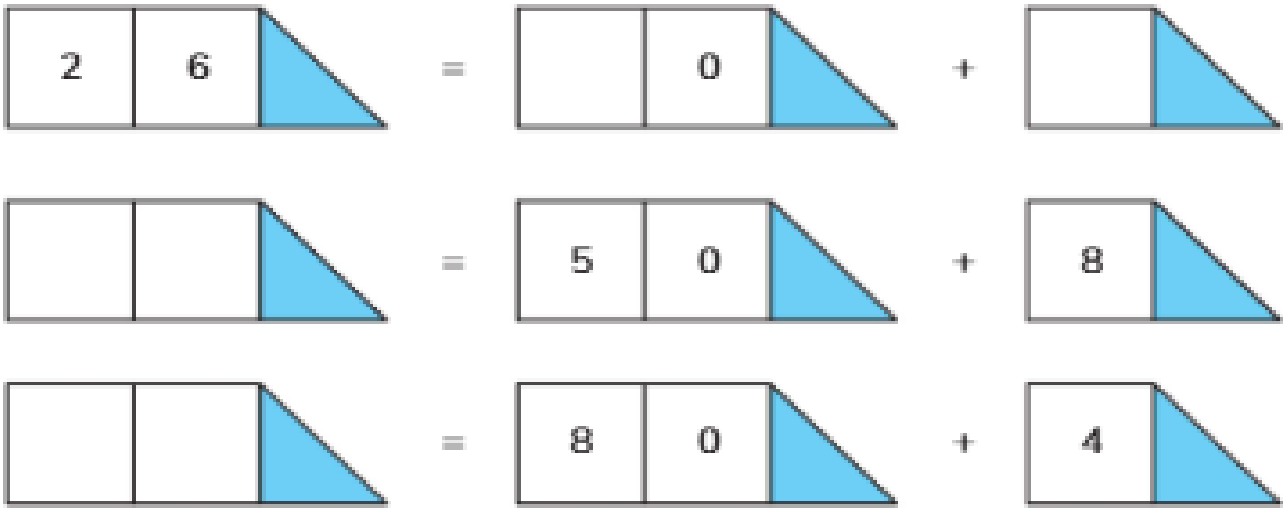

**2-Digit numbers and representation (Pg 17 – 18)**

- Practice reading ten tables and writing the 2-digit number.

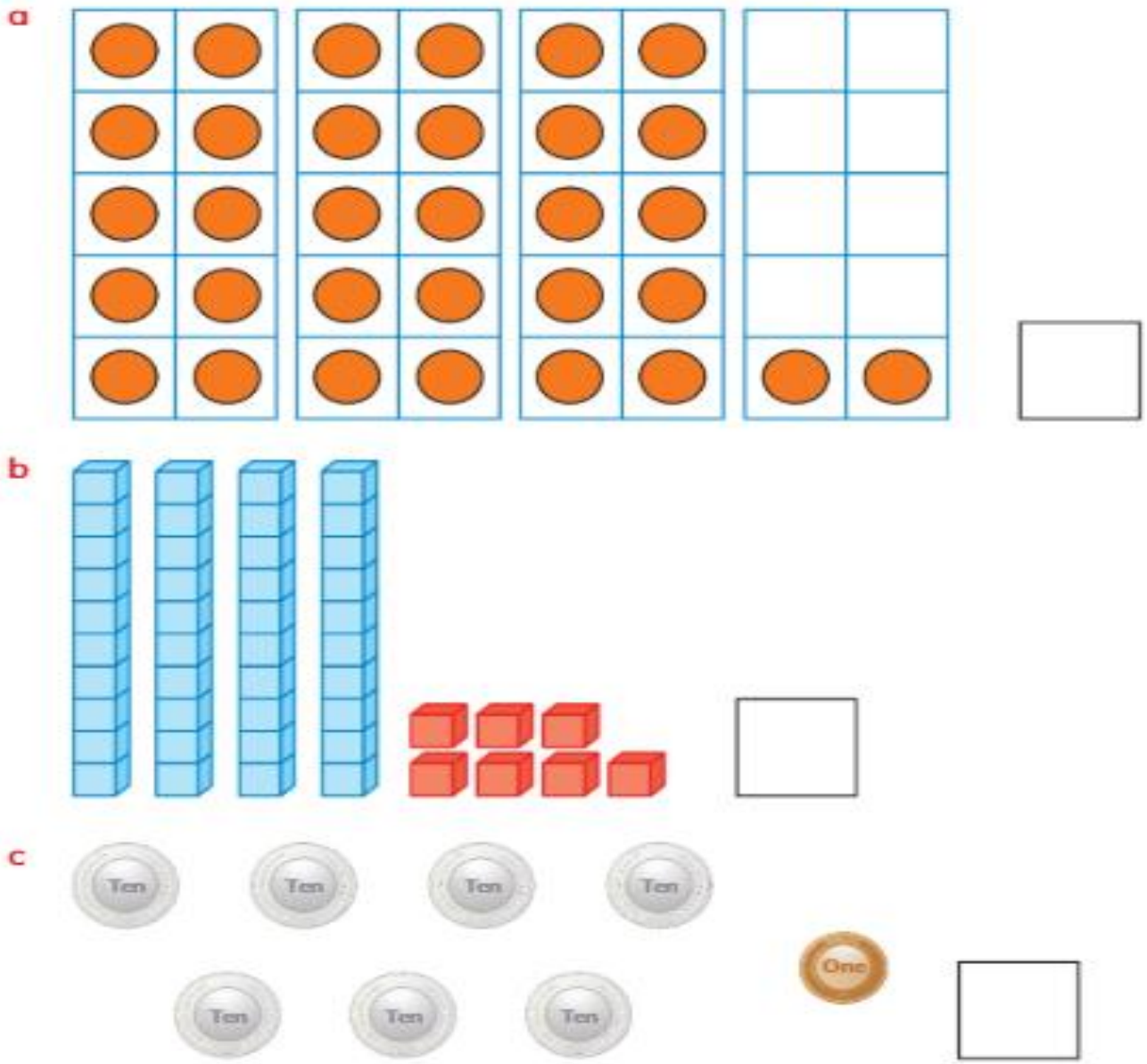


- Practice using the part-whole diagram to represent a 2-digit numbers.

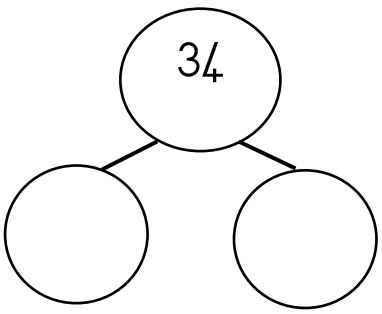


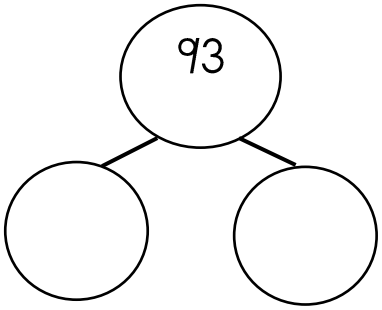

**2) Counting up to 100 objects (Revise Pg 19 - 22)**

**<u>Tens numbers (Pg 20)</u>**

- Practice tens numbers.

Which tens number is 1 ten more than 8 tens? ☐

Which tens number is 1 ten fewer than 6 tens? ☐

**<u>Estimate (Pg 21)</u>**

- Practice estimating. (Do practicals for example how many forks are on the table, or how many peas are on your plate, then count to see how many)

How many cubes are in the collection?

Estimate then count to check.

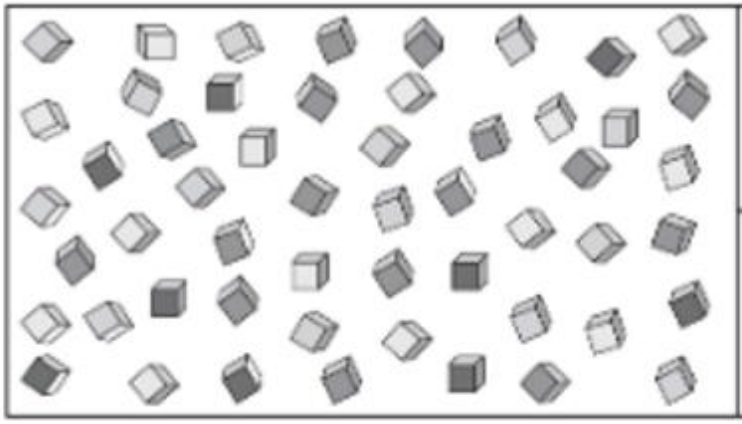

| Estimate | | | |
|---|---|---|---|
| 10 | 20 | 50 | 100 |
| Count | | | |

**<u>Ordinal numbers</u>**

- Practice ordinal numbers. Who came 1st, 2nd, 3rd.

2 Draw a ring around the 3rd elephant.

- Match the ordinal numbers to the words.

| | |
|---|---|
| 1st | tenth |
| 3rd | fourth |
| 2nd | second |
| 4th | first |
| 10th | third |

**Odd and even numbers**

- Practice what is an odd number and what is an even number. (Use the 100 square)

Circle all the odd numbers.

| | | | | | | | | | |
|---|---|---|---|---|---|---|---|---|---|
| 11 | 12 | 13 | 14 | 15 | 16 | 17 | 18 | 19 | 20 |

Circle all the even numbers.

| | | | | | | | | | |
|---|---|---|---|---|---|---|---|---|---|
| 61 | 62 | 63 | 64 | 65 | 66 | 67 | 68 | 69 | 70 |

**3) Comparing and ordering numbers (Revise Pg 23 - 36)**

**Number lines (Pg 23)**

- Practice showing where numbers are on a number line.

Show 29, 65 and 82 on this number line.

**Number sequence (Pg 24)**

- Practice number sequences.

A number sequence starts at 42.

It counts on in tens and stops at 72.

Write the numbers in the sequence.

☐ , ☐ , ☐ , ☐

A number sequence starts at 32.

It counts on in twos and stops at 38.

Write the numbers in the sequence.

☐ , ☐ , ☐ , ☐

A number sequence starts at 37.

It counts on in tens and stops at 77.

What are the numbers in the sequence?

____ ____ ____ ____ ____

**Comparing numbers (Pg 25)**

- Practice comparing numbers. Which one is bigger and which one is smaller. Use a number line to help you.

Compare 35 and 53.

Which number is greater? ☐

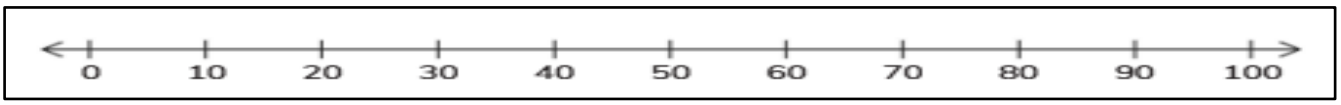


Compare 63 and 36.
Which is the smaller number?

☐

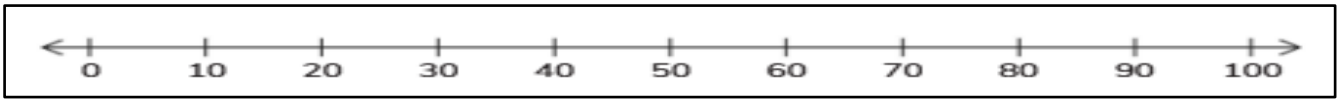


**Ordering numbers (Pg 26)**

- Practice ordering numbers. From biggest to smallest and smallest to biggest. Use a number line to help you.

Order these numbers from smallest to greatest.

21 53 35 12

_____ _____ _____ _____

Order these numbers from greatest to smallest.

82 48 84 28 42

_____ _____ _____ _____ _____